BTECH BATCH APTI EXAMINATION-7

TOTAL DURATION: 35 MINUTES
THIS FORM WILL ACCEPT RESPONSES TILL 10.14.59AM

Full Name *

Sneha Maity

Enrollment No *

12023002001326

Find the number of triangles in the given figure. * (2 Points)

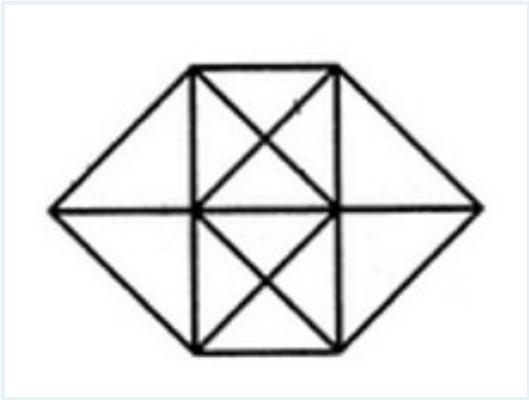

- ○ 20
- ○ 24
- ◉ 28
- ○ 32
- ○ 36

Eight years ago, Pranathi's age was equal to the sum of the present ages of her one son and one daughter. Five years hence, the respective ratio between the ages of her daughter and her son that time will be 7:6. If Pranathi's husband is 7 years elder to her and his present age is three times the present age of their son, what is the present age of the daughter? * (2 Points)

- 19 years
- 27 years
- 15 years
- 23 years

Statements: Some pens are books. All schools are books. Some colleges are schools.

Conclusions:

I. Some colleges are pens.

II. Some pens are schools.

III. Some colleges are books. * (2 Points)

- Only I and II follow
- Only II and III follow
- Only I and III follow
- All follow
- None of these

Select a suitable figure from the four alternatives that would complete the figure matrix. * (2 Points)

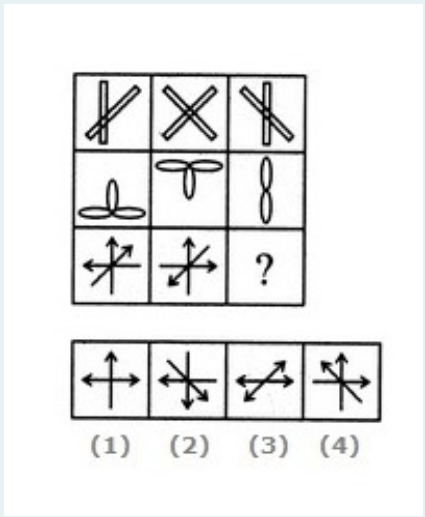

- ○ 1
- ○ 2
- ◉ 3
- ○ 4

If the total amount spent on sports during the year be Rs. 1,80,00,000 , the amount spent on Basketball exceeds on Tennis by: * (2 Points)

The circle-graph given here shows the spending of a country on various sports during a particular year. Study the graph carefully and answer the questions given below it.

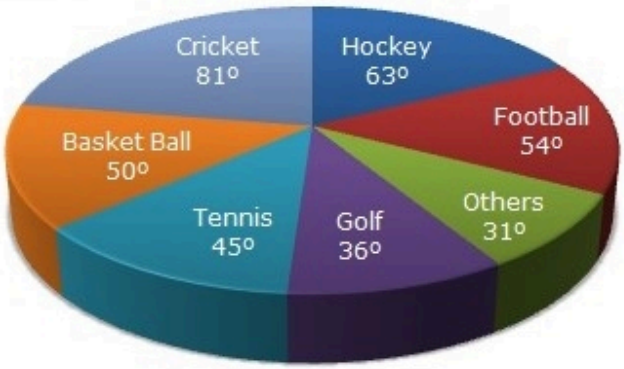

- ◉ Rs. 2,50,000
- ○ Rs. 3,60,000

- Rs. 3,75,000
- Rs. 4,10,000

How much percent less is spent on Football than that on Cricket? * (2 Points)

The circle-graph given here shows the spending of a country on various sports during a particular year. Study the graph carefully and answer the questions given below it.

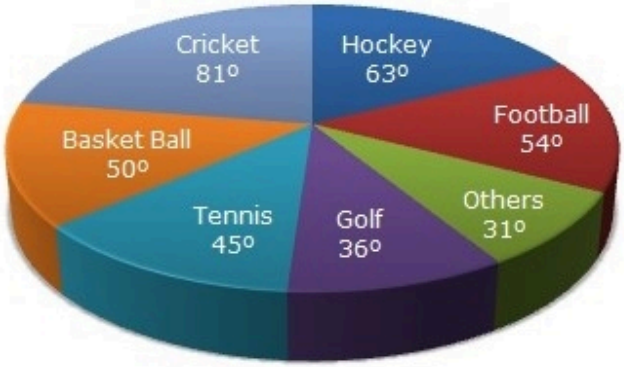

- Option 1: $22\frac{2}{9}\%$
- Option 2: 27%
- Option 3: $33\frac{1}{3}\%$
- Option 4: $\frac{1}{7}\%$

What percent of total spending is spent on Tennis? * (2 Points)

The circle-graph given here shows the spending of a country on various sports during a particular year. Study the graph carefully and answer the questions given below it.

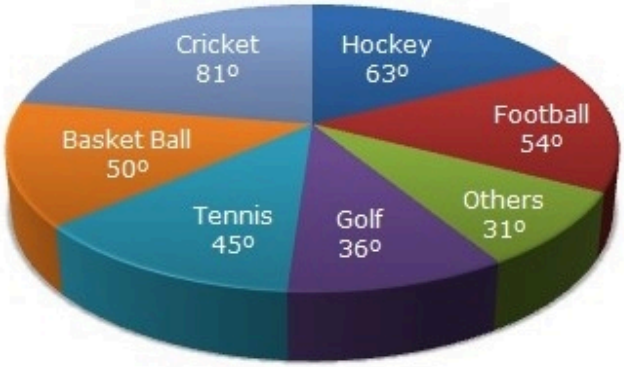

$12\frac{1}{2}\%$

$\frac{1}{2}\%$

- (selected) Option 1
- Option 2
- 25%
- 45%

What was the day of the week on 17th June, 1998? * (2 Points)

- Monday
- Tuesday
- (selected) Wednesday
- Thursday

A farmer travelled a distance of 61 km in 9 hours. He travelled partly on foot @ 4 km/hr and partly on bicycle @ 9 km/hr. The distance travelled on foot is: * (2 Points)

- 14 km
- 15 km
- 16 km
- 17 km

A machine P can print one lakh books in 8 hours, machine Q can print the same number of books in 10 hours while machine R can print them in 12 hours. All the machines are started at 9 A.M. while machine P is closed at 11 A.M. and the remaining two machines complete work. Approximately at what time will the work (to print one lakh books) be finished?
* (2 Points)

- 11:30 A.M.
- 12 noon
- 12:30 P.M.
- 1:00 P.M.

Statements: Government has spoiled many top ranking financial institutions by appointing bureaucrats as Directors of these institutions.

Conclusions:
I. Government should appoint Directors of the financial institutes taking into consideration the expertise of the person in the area of finance.

II. The Director of the financial institute should have expertise commensurate with the financial work carried out by the institute. * (2 Points)

- Only conclusion I follows
- Only conclusion II follows
- Either I or II follows

- Neither I nor II follows
- Both I and II follow

Select a figure from amongst the Answer Figures which will continue the same series as established by the five Problem Figures. * (2 Points)

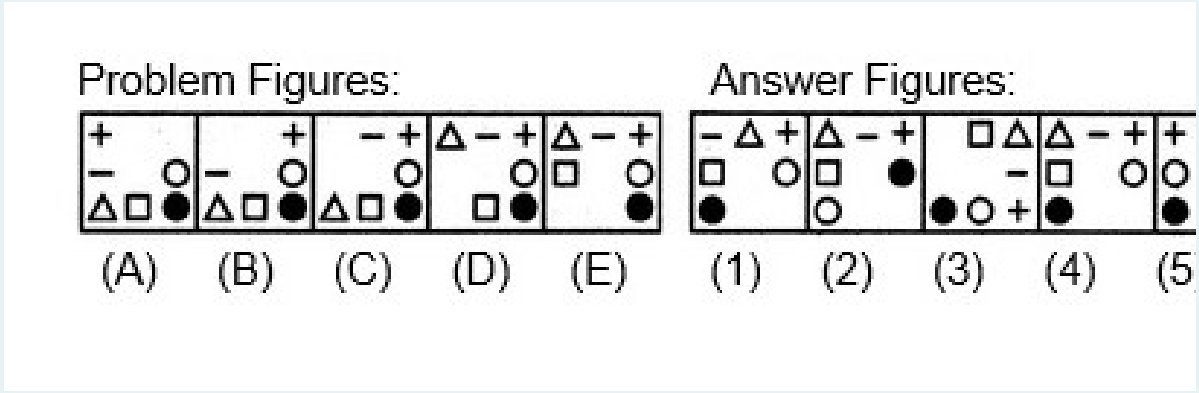

- 1
- 2
- 3
- 4
- 5

Find the number of triangles in the given figure. * (2 Points)

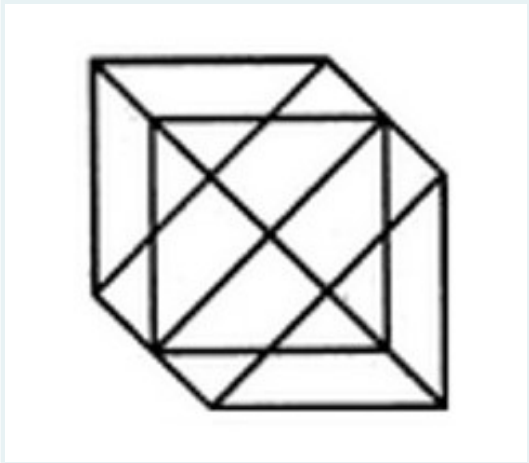

- 18
- 20

- (●) 24
- ( ) 27
- ( ) 30

Select a figure from amongst the Answer Figures which will continue the same series as established by the five Problem Figures. * (2 Points)

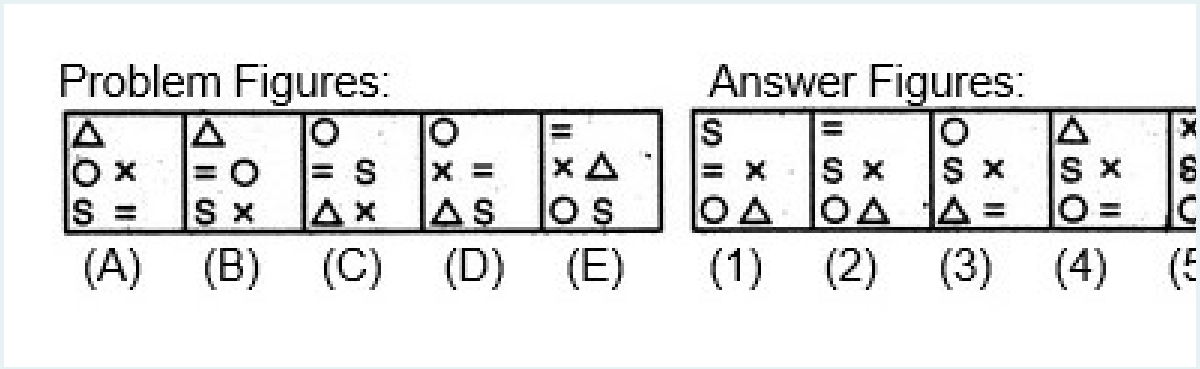

- ( ) 1
- (●) 2
- ( ) 3
- ( ) 4
- ( ) 5

Look at this series: 8, 43, 11, 41, __, 39, 17... What number should fill in the blank? * (2 Points)

- ( ) 8
- (●) 14
- ( ) 43
- ( ) 44

Select a suitable figure from the Answer Figures that would replace the question mark (?). * (2 Points)

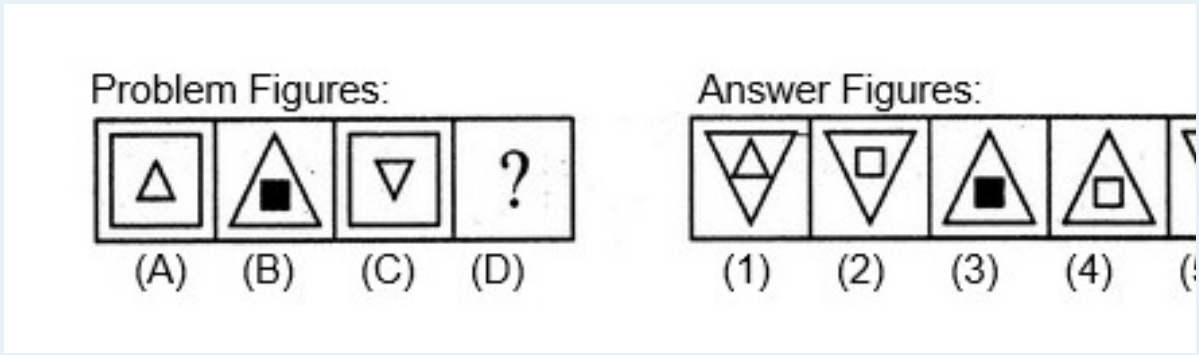

- 1
- 2
- 3
- 4
- 5

How much percent more is spent on Hockey than that on Golf? * (2 Points)

The circle-graph given here shows the spending of a country on various sports during a particular year. Study the graph carefully and answer the questions given below it.

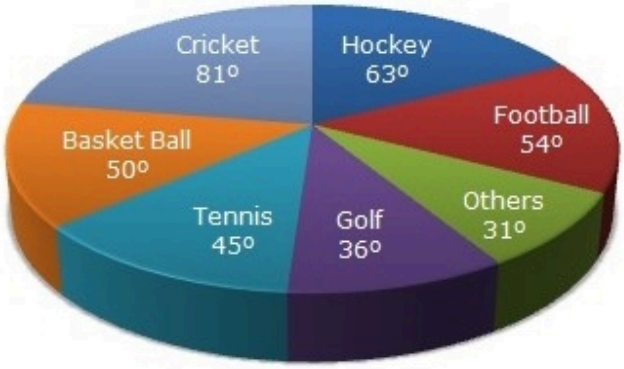

- 27%

- ○ 35%
- ○ 37.5%
- ◉ 75%

If the total amount spent on sports during the year was Rs. 2 crores, the amount spent on Cricket and Hockey together was: * (2 Points)

The circle-graph given here shows the spending of a country on various sports during a particular year. Study the graph carefully and answer the questions given below it.

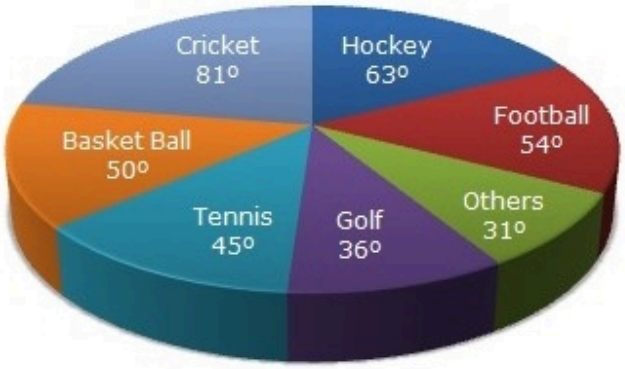

- ○ Rs. 8,00,000
- ◉ Rs. 80,00,000
- ○ Rs. 1,20,00,000
- ○ Rs. 1,60,00,000

If 6 men and 8 boys can do a piece of work in 10 days while 26 men and 48 boys can do the same in 2 days, the time taken by 15 men and 20 boys in doing the same type of work will be: * (2 Points)

- ◉ 4 days
- ○ 5 days
- ○ 6 days

- 7 days

Statements: All trains are buses. No room is bus. All boats are rooms.

Conclusions:

I. No boat is train.

II. No bus is boat.

III. No train is room. * (2 Points)

- None follows
- Only I and II follow
- Only II and III follow
- Only I and III follow
- All follow

Microsoft 365

This content is created by the owner of the form. The data you submit will be sent to the form owner. Microsoft is not responsible for the privacy or security practices of its customers, including those of this form owner. Never give out your password.

Microsoft Forms | AI-Powered surveys, quizzes and polls Create my own form

The owner of this form has not provided a privacy statement as to how they will use your response data. Do not provide personal or sensitive information. | Terms of use